1 - 31

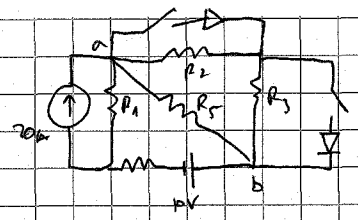
2 - 31

3 - 34

96

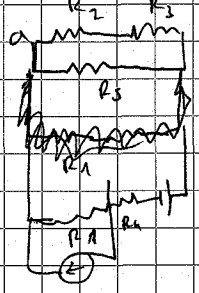
הערות הבודק

31/33

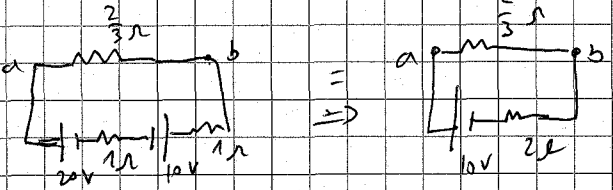


$R_1 = R_2 = R_3 = R_4 = R_5 = 1\Omega$

$V = 10V$



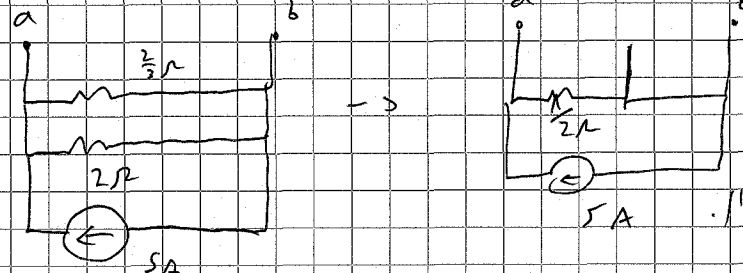
$\frac{1}{\frac{1}{2}+\frac{1}{1}} = \frac{1}{\frac{1+2}{2}} = \frac{2}{3}$



$V = IR \quad 20 \cdot 1 = 6$

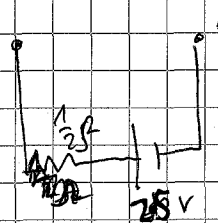
$I_P = 2 \cdot I$

$I = 5$

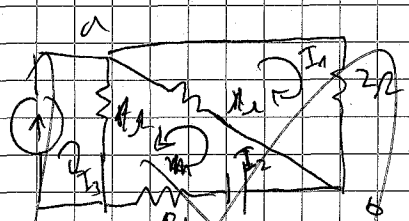


$\frac{1}{\frac{1}{2}+\frac{1}{2}} = \frac{2}{4}$

$5 \cdot 2 = 6$



שקול נמצא!



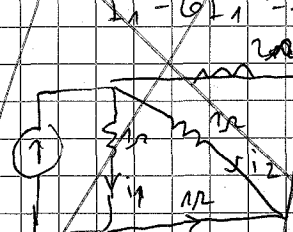
$\begin{pmatrix} 3 & 1 \\ 3 & \end{pmatrix} \begin{pmatrix} I_1 \\ I_2 \end{pmatrix} = \begin{pmatrix} 0 \\ 10-20 \end{pmatrix}$

$3I_1 + I_2 = 0 \qquad I_2 = -3I_1$

$I_1 + 3I_2 = -6 \qquad I_1 - 9I_1 = -10 \qquad -8I_1 = -10$

$I_1 = 2A$

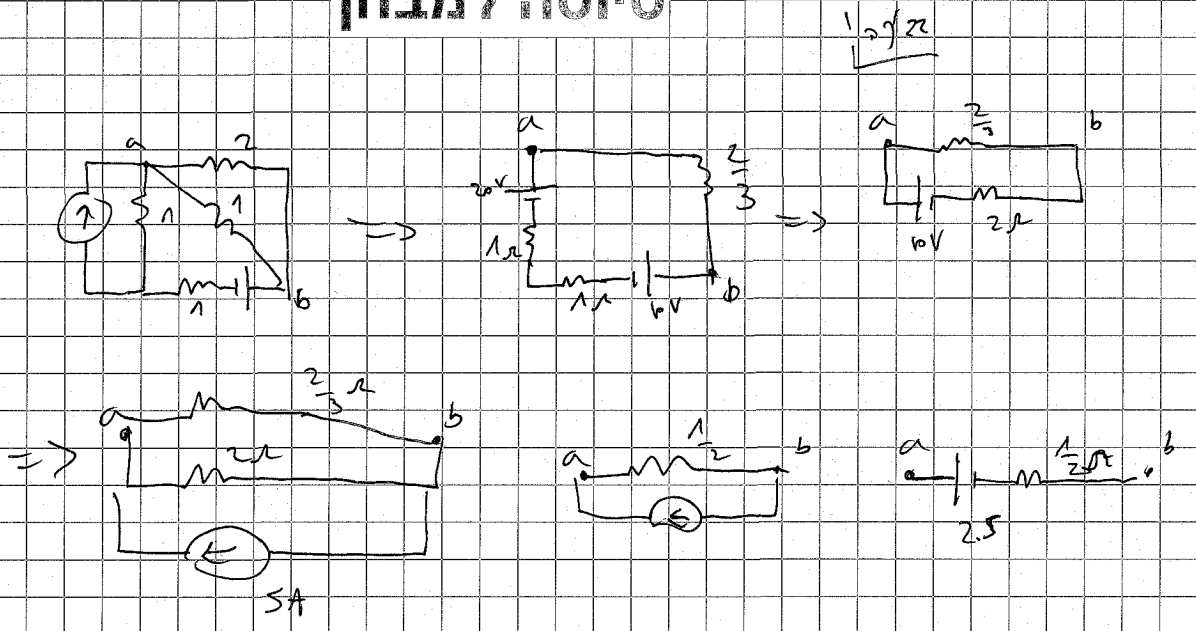
$I_2 = -6A$



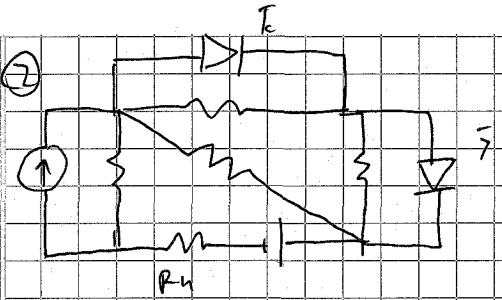
$\begin{cases} i_1 = I_2 + 20 = 14A \\ i_2 = -I_1 + I_2 = +4A \end{cases}$

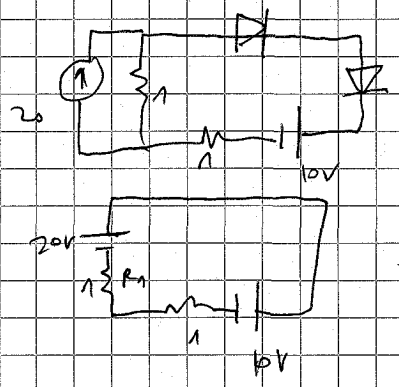
$i_3 = I_2 = -6A \qquad i_4 = I_1 = 2A$

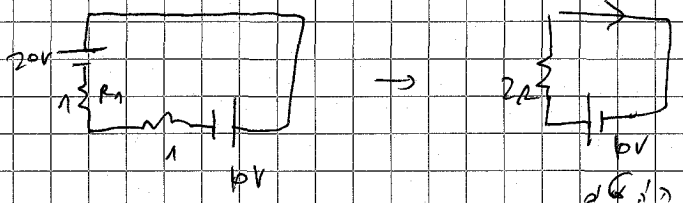
טיוטה למבחן



הערות הבודק







I_L נקבל ממשפט קירכהוף:

הנגדים מקוצרים כיוון

שמתחם שווה מתח

על הנגדים.

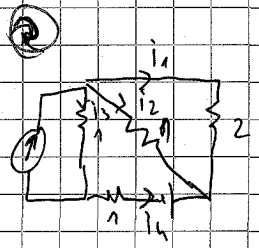
$I_L = 5A$ לכן זרם של 1Ω שווה ל

$P = I^2 R = 25 \cdot 1 = \underline{25W}$.

כיוון שלכל הענף

זהה אותו הזרם.

(ב)



$i_1 + i_2 + i_3 = 20A$

$2i_1 = i_2$ $\quad 3i_1 + i_3 = 20$

$i_3 = 20 - 3i_1$

$i_2 + 10 + i_1 + i_2 - i_3 = 0$

$2i_1 + 10 + i_1 + 2i_1 - 20 + 3i_1 = 0$

$8i_1 = 10$ $\quad 2i_1 = 10$

$i_1 = \frac{10}{8}$

$i_2 = \frac{20}{8}$

$i_3 = 20 - \frac{30}{8}$

$i_3 = 16.25$

$i_4 = -i_1 - i_2 = -\frac{30}{8}$

$10 = -10 + 5 + -15$

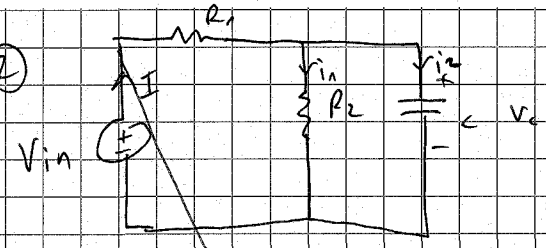
$i_1 = 5A$

$i_2 = 10A$

$i_3 = 5A$

$i_4 = -i_1 - i_2 = -15A$ ✓

הערות הבודק



א. נמצא

$$i_1 \cdot R_2 = V_{c(0)} + \frac{1}{C}\int i_2\, d\tau = V_c$$

$$i_1 = \frac{\dot V_c}{R_2} \qquad i_2 = C\dot V_c$$

$$i_1 = \frac{V_c}{R_2}$$

$$V_{in} = R_1\cdot(i_1+i_2) + V_c = R_1\left(\frac{V_c}{R_2} + C\dot V_c\right) + V_c$$

$$R_1 C\dot V_c + \left(\frac{R_1}{R_2}+1\right)V_c = V_{in} \Rightarrow \dot V_c + \frac{R_1+R_2}{CR_2R_1}V_c = \frac{V_{in}}{R_1C}$$

כאשר המקור כבוי, כלומר $V_{in}=0$, ו

$$\frac{R_1+R_2}{CR_2R_1}\cdot V_{c(p)} = \frac{1}{R_1C}$$

$$V_{cp} = \frac{R_2}{R_1+R_2}$$

$$V_c = A\cdot e^{-\frac{R_1+R_2}{CR_1R_2}t} + \frac{R_2}{R_1+R_2}$$

$$V_{c(0)} = 0 \qquad A = -\frac{R_2}{R_1+R_2}$$

לכן $V_c(t) = \frac{R_2}{R_1+R_2}\left(1 - e^{-\frac{R_1+R_2}{CR_1R_2}t}\right)\cdot u(t)$

ב. $t\to\infty$

V_{in} - V_c ו- R_1 במקביל

$$V_c(t\to\infty) = \frac{R_2}{R_1+R_2} \qquad V_{R_1} = \frac{R_1+R_2-R_2}{R_1+R_2} = \frac{R_1}{R_1+R_2}$$

הערות הבודק

$R_1 = 1\Omega$; $R_2 = 10\Omega$

$\omega = 20$ MHz

$$H(\omega) = \left| \frac{V_{out}}{V_{in}} \right| \geq \frac{1}{\sqrt{2}} \left| H(\omega = 0) \right|$$

$$\hat{V}_{in} = (\hat{I}_1 + \hat{I}_2) \cdot R_1 + \hat{I}_1 R_2$$

$$\hat{I}_1 R_2 = \frac{\hat{I}_2}{j\omega C}$$

$$\hat{I}_1 = \frac{\hat{I}_2}{j R_2 \omega C}$$

$$\hat{V} = \hat{I}_2 \left(\frac{j R_1 R_2 \omega C + R_1}{j R_2 \omega C} \right) + \hat{I}_2 \frac{R_2}{j R_2 \omega C}$$

$$\hat{V}_{in} = \hat{I}_2 \left(\frac{j R_1 R_2 \omega C + R_1 + R_2}{j R_2 \omega C} \right)$$

$$V_c = \frac{V_{in} \cdot j R_2 \omega C}{(j R_1 R_2 \omega C + R_1 + R_2)\, j\omega C} =$$

$$H(\omega) = \frac{V_{out}}{V_{in}} = \frac{R_2}{j R_1 R_2 \omega C + R_1 + R_2} \geq \frac{1}{\sqrt{2}} \frac{R_2}{R_1 + R_2}$$


$$\frac{j R_1 R_2 \omega C + R_1 + R_2}{R_2 + R_2} \leq \frac{R_1 + R_2}{R_1 + R_2}$$

$$j R_1 R_2 \omega C + R_1 + R_2 \leq \sqrt{2} R_1 + \sqrt{2} R_2$$

$$j R_1 R_2 \omega C \leq (R_1 + R_2)(\sqrt{2} - 1)$$

$$\leq \frac{R_1 + R_2(\sqrt{2}-1)}{j R_1 R_2 \omega}$$

טיוטה למבחן



$$\left|\frac{10\omega jc+b}{11+10\omega jc}\right| \geq \frac{10}{11\sqrt{2}}$$

$$\left|\frac{(10\omega jc+b)(11-10\omega jc)}{11^2+100\omega^2c^2}\right| \geq \frac{10}{11\sqrt{2}}$$

$$\left|\frac{110\omega jc-100\omega jc+110+100\omega^2c^2}{11^2+100\omega^2c^2}\right| \geq \frac{10}{11\sqrt{2}}$$

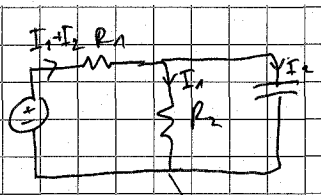
$$\frac{100\omega^2c^2+(110+100\omega^2c^2)^2}{(11^2+100\omega^2c^2)^2} \geq \frac{100}{2\cdot 11^2}$$

$$100\omega^2c^2+12100+22000\omega^2c^2+10000\omega^4c^4 \geq \frac{100}{242}(\text{illegible})$$

$$14641+24200\omega^2c^2+10000\omega^4c^2$$

$$\frac{48}{121}\omega^4c^4+2100\omega^2c^4-2541\geq 0$$

הערות
הבודק



$$\hat{V} = (\hat{I}_1 + \hat{I}_2) R_1 + \hat{I}_1 R_2$$

$$\hat{I}_1 R_2 = \frac{\hat{I}_2}{j\omega C} \qquad \hat{I}_1 = \frac{\hat{I}_2}{R_2 \omega C j}$$

$$\hat{V} = \hat{I}_2 \left(R_1 + \frac{R_1}{R_2 \omega C j} + \frac{1}{\omega C j} \right) = I_2 \left(\frac{R_1 R_2 \omega C j + R_1 + R_2}{R_2 \omega C j} \right)$$

$$I_2 = \frac{\hat{V}_{in} R_2 \omega j C}{R_1 + R_2 + R_1 R_2 \omega C j}$$

$$H(\omega) \left| \frac{V_C}{V_{in}} \right| = \frac{R_2 \omega j C}{R_1 + R_2 + R_1 R_2 \omega C j} \overset{?}{\geq} \frac{1}{\sqrt{2}} = \frac{R_2 \omega j C (R_1 + R_2 - R_1 R_2 \omega C j)}{(R_1 + R_2)^2 + (R_1 R_2 \omega C)^2}$$

$$\in \mathbb{C}$$

$$(R_2 + R_1) R_2 \omega j C + R_2^2 R_1^2 C^2 \omega^2$$

$$H(\omega) \frac{V_{R_1}}{V_{in}} = \frac{(I_1 + I_2) R_1}{V_{in}} = R_1 \left(\frac{R_2 \omega j C + R_2}{R_1 + R_2 + R_1 R_2 \omega j C} \right) \frac{V_{in}}{V_{in}}$$

...

$$H(\omega) = \frac{R_2 \omega j C + R_2}{R_1 + R_2 + R_1 R_2 \omega j C} \geq \frac{1}{\sqrt{2}} \frac{R_2}{R_1 + R_2}$$

$$\left| \frac{10 \omega j C + 10}{11 + 10 \omega j C} \right| \geq \frac{1}{\sqrt{2}} \frac{10}{11}$$

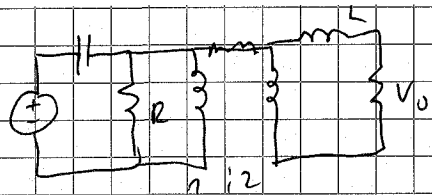
$$10 \omega j C + 10 \geq \frac{10}{11\sqrt{2}} (11 + 10 \omega j C)$$

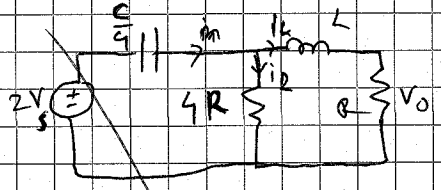
$$10 \omega j C \left(1 - \frac{100}{11\sqrt{2}}\right) \geq \frac{10}{\sqrt{2}} - 10$$

$$\sqrt{\frac{(10\omega j C + 10)(11 - 10\omega j C)}{11^2 + 100\omega^2 C^2}} \geq \frac{10}{11\sqrt{2}} \Rightarrow 110\omega j C$$

הערות הבודק

①





$$\frac{4}{C}\int I_L + i_2 + 4R i_2 = 2V_s$$

$$\frac{4}{C}(I_L + i_2) + 4R i_2' = 2V_s'$$

$$L i_L' + i_L R = i_2 R \cdot 4$$

$$i_2 = \frac{L i_L'}{4R} + \frac{i_L}{4}$$

$$\frac{4}{C}\left(I_L + \frac{i_L}{4} + \frac{i_L'}{4R}\right) + 4RI_L' = 2V_s'$$

$$\frac{4}{C}\left(\frac{5}{4}I_L + \frac{L I_L'}{4R}\right) + 4R\left(\frac{L I_L'}{4R} + \frac{I_L'}{4}\right) = 2V_s'$$

$$\frac{4V_R}{RC} + \frac{V_R'}{RC} + \left(\frac{4V_R}{CR^2} + 4\right)V_R' = 2RV_s'$$

$$\frac{5}{RC}(RI_L) + \frac{L}{C4R^2}(RI_L') + \frac{4L}{R}(RI_L'') + RI_L' = 2V_s'$$

$$\frac{5}{RC}V_R + \left(1 + \frac{L}{4R^2}\right)V_R' + \frac{L}{R}V_R'' = 2V_s' \quad / \cdot \frac{R}{L}$$

$$V_R'' + \left(\frac{R}{L} + \frac{1}{4RC}\right)V_R' + \frac{5}{LC}V_R = \frac{2R}{L}V_s'$$

$$2V_s = \frac{4}{C}\int i_L + i_R + 4R i_R$$

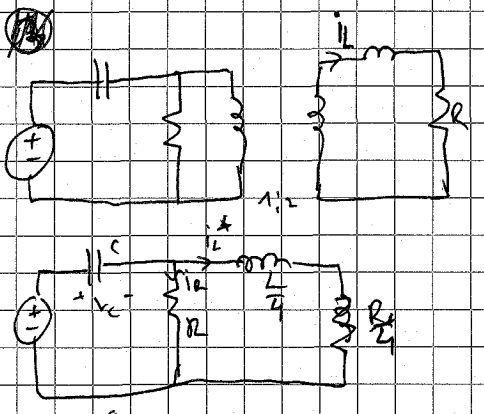
$$2V_s' = \frac{4}{C}i_L + \frac{4L}{C}\frac{I_L'}{4R} + \frac{4}{C}\frac{i_L}{4} + 4RL\frac{I_L''}{4R} + \frac{4R\,i_L'}{4}$$

$$2V_s' = \frac{5}{C}i_L + i_L'\left(\frac{L}{RC} + R\right) + LI_L'' \quad / \cdot \frac{R}{L}$$

$$\frac{2R}{L}V_s' = \frac{5R}{CL}V_C + V_C'\left(\frac{1}{RC} + \frac{R}{L}\right) + V_R''$$

הערות הבודק

(3)



$$V_s = \int (i_L^* + i_R)\,dt \cdot \frac{1}{C} + i_R \cdot R$$

$$i_R \cdot R = i_L^{*1} \cdot \frac{L}{4} + i_L^* \cdot \frac{R}{4}$$

$$i_R = i_L^1 \cdot \frac{L}{4R} + \frac{i_L^*}{4}$$

$$\dot{V}_s = \frac{1}{C}\left(i_L^* + i_R\right) + i_L^1 \cdot R$$

$$\dot{V}_s = \frac{1}{C}\left(i_L^* + i_L^* \cdot \frac{L}{4R} + i_L^* \frac{1}{4}\right) + R\,\frac{i_L^{11}}{4R} + \frac{i_L^{1}}{4} \cdot R$$

$$i_L^* \cdot R = V_R \qquad i_L^* = \frac{V_R}{R}$$

$$\dot{V}_s = \frac{1}{C}\left(\frac{V_R}{R} + \frac{\dot{V}_R \cdot L}{4R^2} + \frac{V_R}{4R}\right) + \frac{\ddot{V}_R}{4R} + V_R \;/\cdot 4R$$

$$\ddot{V}_R + \frac{L}{R}\dot{V}_R + \left(\frac{5}{C} + 4R\right)V_R = 4R\,V_s$$

טיוטה למבחן

$$I_2 = I_1' \frac{L}{4R} + \frac{I_1}{4}$$

$$I_2' = I_1'' \frac{L}{4R} + \frac{I_1'}{4}$$

$$\dot{V}_1 = \frac{1}{C}\left(\frac{3}{4} I_1 + \frac{L}{4R} I_1'\right) + I_1' \frac{L \cdot R}{4R} + \frac{I_1'}{4} \cdot R$$

$$\dot{V}_5 = \frac{5}{4C} I_1 + \left(\frac{L}{4RC} + \frac{R}{4}\right) I_1' + \frac{L}{4} I_1'' \quad / \cdot \frac{4R}{L}$$

$$\frac{4R}{L} \dot{V}_5 = \frac{5}{LC} V_R + \left(\frac{1}{RC} + \frac{R}{L}\right) V_R' + V_R''$$

V_0 (מחובר) $I_L = A$

$$V_0 = I_L \cdot R = RA$$

I_L

$$V_C = B$$

V_0

$$i_L' \cdot L + V_0 = 2V_5 - 2V_C$$

$$i_L' \cdot L = 2V_5 - 2B - RA$$

$$i_L' = \frac{2V_5 - 2B - RA}{L}$$

$$R i_L' = V_0' = \frac{R}{L}(2V_5 - 2B - RA)$$

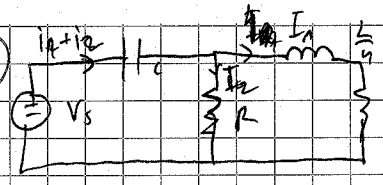
$$V_R'' + \left(\frac{1}{RC} + \frac{R}{L}\right) V_R' + \frac{5}{LC} = \frac{2R}{L} \dot{V}_5$$

[illegible] V_0 [illegible]

$$V_R'' + \left(\frac{1}{RC} + \frac{R}{L}\right) V_R' + \frac{5}{CL} V_R = 2\frac{R}{L} V_5'$$

הערות
הבודק

③



1 : 2

$V_0 = 2\, V_{0(real)}$

$V_0 + V_C = V_S$

$V_0 = V_S - V_C$

$$\frac{L}{4}\dot{i}_R'' + \dot{i}_R \cdot \frac{R}{4} = \frac{1}{C}\left(i + i_R\right) + \frac{L}{4}\dot{i}$$

$$\dot{V}_S = \frac{1}{C}(I_1 + I_2) + \dot{I}_2 R$$

$$I_2 \cdot R = I_1' \frac{L}{4} + I_1 \frac{R}{4}$$

$$I_2 = I_1' \frac{L}{4R} + \frac{I_1}{4} \qquad \dot{I}_2 = I_1'' \frac{L}{4R} + \frac{I_1'}{4}$$

$$\dot{V}_S = \frac{1}{C}\left(I_1 + I_1' \frac{L}{4R} + \frac{I_1}{4}\right) + I_1'' \frac{L}{4} + I_1' \frac{R}{4} \quad / \cdot \frac{R}{4}$$

$$I_1 \cdot \frac{R}{4} = V_0$$

$$\frac{R}{4}\dot{V}_S = \frac{R}{4C} I_1 + \frac{R}{4C} I_1 \cdot \frac{1}{4C} + \frac{R}{4C} I_1' \cdot \frac{L}{4R} + I_1'' \frac{R}{4} \cdot \frac{L}{4} + I_1' \frac{R}{4}$$

$$\frac{R}{4}\dot{V}_S = V_0 \left(\frac{1}{C} + \frac{1}{4C}\right) + \left(\frac{V_0' \cdot L}{2 \cdot 4R}\right) + V_0'' \frac{L}{4} + V_0' \frac{R}{4} \quad / \cdot \frac{4}{L}$$

$$V_0'' + \left(\frac{1}{RC} + \frac{R}{L}\right) V_0' + \left(\frac{4}{LC} + \frac{1}{LC}\right) V_0 = \left(\frac{R}{L} V_S'\right) \Rightarrow \frac{2R}{L} V_S'$$

$V_0^* = 2\, V_0$ ← הגדרת המשתנה

(הפתרון עבור V_0^*)

② $V_C(0^-) = B$ $\qquad V_0(0^-) = I_L(0^-) \cdot R$ | V_0^* נקבל את V_0 ולאחר מכן נחשב את

$I_L(0^-) = A$

$V_0(0^-) = AR$

$V_0'(0^+) = \frac{1}{L}(2RV_S - 2RB - AR^2)$

$V_0'(0) = i_L' \cdot R$

$i_L' \cdot L + i_L R =$ (מתח קבל ומתח נגד שווים זה לזה)

$V_0(0^-)$

$V_0 = 2V_S - 2V_C$

$i_L' \cdot L + i_C R = 2V_S - 2V_C$

$i_L' = \frac{2V_S - 2V_C - AR}{L}$

$V_C = \int i_L + i_2 \qquad V_0 = i_L \cdot R$

הערות הבודק

20

$$V_o'' + 2V_o' + 5V_o = 2V_s$$

$$V_o(0^-) = 1V$$

$$V_o'(0^-) = 3 \frac{V_o/b}{sec}$$

② ZIR:

$$\lambda^2 + 2\lambda + 5 = 0 \qquad \frac{-2 \pm \sqrt{4 - 4 \cdot 1 \cdot 5}}{2} \qquad \frac{-2 \pm 4i}{2}$$

$$S_1 = -1 + 2i \qquad S_2 = -1 - 2i$$

$$V_o = e^{-t}(A \sin(2t) + B\cos(2t))$$

$$V(t=0) = B = 1$$

$$V_o'(t=0) = -e^{-t}(\cos(2t)) + e^{-t}(2A) = 3$$

$$-1 + 2A = 3 \qquad 2A = 4 \qquad A = 2$$

$$V_{o\ ZIR} = e^{-t}(2\sin 2t + \cos 2t)$$

③

$$V(0^-) = 0$$

$$V_o'(0^-) = 2$$

$$B = 0$$

$$V_o' = e^{-t} 2A \cos(2t) = 2$$

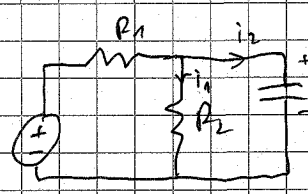
$$A = 1.$$

$$V_{o\ ZSR} = (e^{-t} \sin 2t) \cdot u(t)$$

$$V_{o(t)} = e^{-t}(2\sin 2t + \cos 2t) + (e^{-t} \sin 2t) \cdot u(t)$$

34

הערות הבודק



31/33

$$C\dot{V}_c = i_2$$

$$i_1 \cdot R_2 = V_c$$

$$i_1 = \frac{V_c}{R_2}$$

$$V_S = \left(\frac{V_c}{R_2} + C\dot{V}_c\right) \cdot R_1 + V_c$$

$$V_S = R_1 C \dot{V}_c + \left(1 + \frac{R_1}{R_2}\right) V_c$$

$$\dot{V}_c + \frac{R_2+R_1}{R_1 R_2 C} V_c = \frac{V_{in}}{R_1 C}$$

$$V_c(t) = \underbrace{A \cdot e^{-\frac{R_1+R_2}{CR_1R_2}t}}_{V_H} + V_{cp}$$

$$\frac{R_2+R_1}{R_1R_2C} V_{cp} = \frac{1}{R_1 C} \qquad V_{cp} = \frac{R_2}{R_1+R_2}$$

$$A \cdot e^{-\frac{R_1+R_2}{CR_1R_2}t} + \frac{R_2}{R_1+R_2} = 0$$

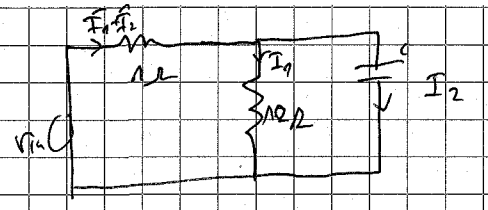
$$A = -\frac{R_2}{R_1+R_2}$$

$$V_c = \frac{R_2}{R_1+R_2}\left(1 - e^{-\frac{R_1+R_2}{CR_1R_2}}\right) \cdot V(t)$$

$$V_R(t\to\infty) = V_{in} - V_c(t\to\infty) = 1 - \frac{R_2}{R_1+R_2} = \frac{R_1}{R_1+R_2}$$

הערות
הבודק

(2)



$$10\Omega I_1 = \frac{I_2}{j\omega C} \qquad I_1 = \frac{I_2}{10 j\omega C}$$

$$\hat{V} = \hat{I}_1 + \hat{I}_2 + 10 I_1 = 11 I_1 + I_2 = I_2\left(\frac{11}{10 j\omega C} + 1\right)$$

$$\hat{V} = \hat{I}_2\left(\frac{11 + 10 j\omega C}{10 j\omega C}\right) = I_2\left(\frac{-110 j\omega C + 100\omega^2 C^2}{100\omega^2 C^2}\right)$$

$$\hat{I}_2 = \frac{\hat{V}\, 100\omega^2 C^2}{100\omega^2 C^2 - 110\omega j C} \qquad \hat{I}_2 = \frac{\hat{V}\, 10 j\omega C}{11 + 10 j\omega C}$$

$$\hat{I}_1 = \frac{\hat{V}}{11 + 10 j\omega C}$$

$$\hat{V}_C = \hat{I}_1 \cdot R_2 = \frac{10\,\hat{V}}{11 + 10 j\omega C} \qquad (V_C \parallel V_{R_2})$$

$$H(\omega) = \left|\frac{V_{out}}{V_{in}}\right| = \left|\frac{10}{11 + 10 j\omega C}\right| = \frac{10}{\sqrt{121 + 100\omega^2 C^2}}$$

$$H(\omega) \geq \frac{1}{\sqrt{2}} \left|H(\omega=\infty)\right|$$

$$H(\omega) \geq \frac{1}{\sqrt{2}} \cdot \frac{10}{11}$$

$$\frac{10}{\sqrt{121 + 100\omega^2 C^2}} \geq \frac{10}{11\sqrt{2}} \qquad (11\sqrt{2})^2 \geq 121 + 100\omega^2 C^2$$

$$242 \geq 121 + 100\omega^2 C^2$$

$$121 \geq 100\omega^2 C^2$$

$$0 < \omega^2 C^2 \leq \left(20\cdot 10^3\right)^2 (2\pi)^2 = 1.579\cdot 10^{10}\ \omega^2 C^2 \leq 1.21$$

$$\omega = 2\pi f \qquad 0 < C^2 < 7.66\cdot 10^{-11}$$

$$f = 20\cdot 10^3 \qquad 0 < C < 8.754\ \mu F$$

$$\Rightarrow \boxed{0 < C < 8.754\ \mu F} \quad \checkmark$$

(כדי שהמתח V_{out} יהיה לפחות $\frac{1}{\sqrt{2}}$ מהמתח המקסימלי שלו)

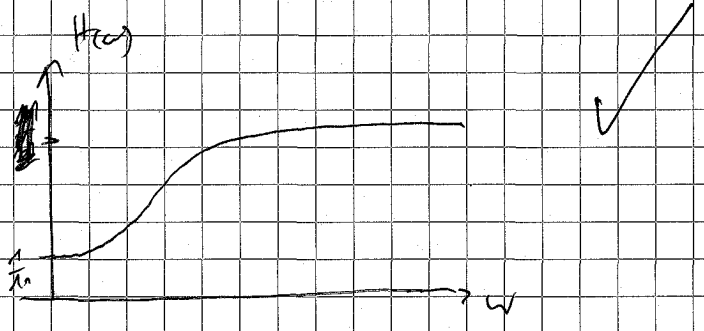
הערות
הבודק

$$H(\omega) = \frac{V_{R_1}}{V_{in}} = \frac{(I_2 + I_1)\cdot R_1}{V_{in}}$$ ③

$$H(\omega) = \frac{\hat{V}}{\hat{V}} \left(\frac{10 j\omega C + 1}{\text{[illegible]}\, 11 + 10 j\omega C} \right) \cdot \frac{R_1}{\text{[illegible]}}$$

$$\omega \to 0 \quad H(\omega) = \frac{\text{[illegible]}\, 1}{11}$$

$$\omega \to \infty \quad H(\omega) \to 1$$



[illegible]

-2